USN. [ ][ ][ ][ ][ ][ ][ ][ ][ ][ ] [18CE63]

SIXTH SEMESTER B.Tech UNIVERSITY EXAMINATION, JULY–2022
ESTIMATION, COSTING AND SPECIFICATION

Time: 3 Hours **Maximum Marks: 70**

Instructions:

i. **PART-A** is compulsory, answer *THREE* questions from **PART-B**, Each question carry 14 marks.

ii. Missing data may be suitably assumed.

PART-A

1 Figure 1(a) and (b) gives the plan and section of a building. Estimate the quantities of following by Long wall short wall method **28**

i. Earthwork in excavation in ordinary soil

ii. Lime Concrete in Foundation bed

iii. SSM in foundation and PCC in Plinth

iv. Providing RCC Roof slab

PART-B

2. Prepare an abstract estimate of septic tank with soak pit for 50 users from given drawings Fig.(2). **14**

OR

3. Estimate the quantity of earthwork for a portion of road for 400m length from the following data **14**

Distance (m)	0	1	2	3	4	5	6
GL	123.9	125.00	124.60	122.90	121.60	121.00	120.40
FL	123.20	123.60	124.00	123.60	123.20	122.80	122.40

Road width at formation surface is 10 metre. Side slope 2:1

4. Write the detailed specification for the following items of work **14**

i. Earthwork in excavation for foundation

ii. First Class Brickwork

iii. Cement Plastering

OR

5. Mention the different types of contracts. Explain any two in detail. **14**

6. a What is valuation? Mention the differences between valuation and cost. **05**

b Write Short notes on **09**

i. Salvage Value

i. Market value

ii. Book Value

OR

7. Write short notes on **14**

i. Nominal Muster Roll

ii. Schedule of Rates

iii. Earnest Money Deposit

iv. Purpose of Valuation

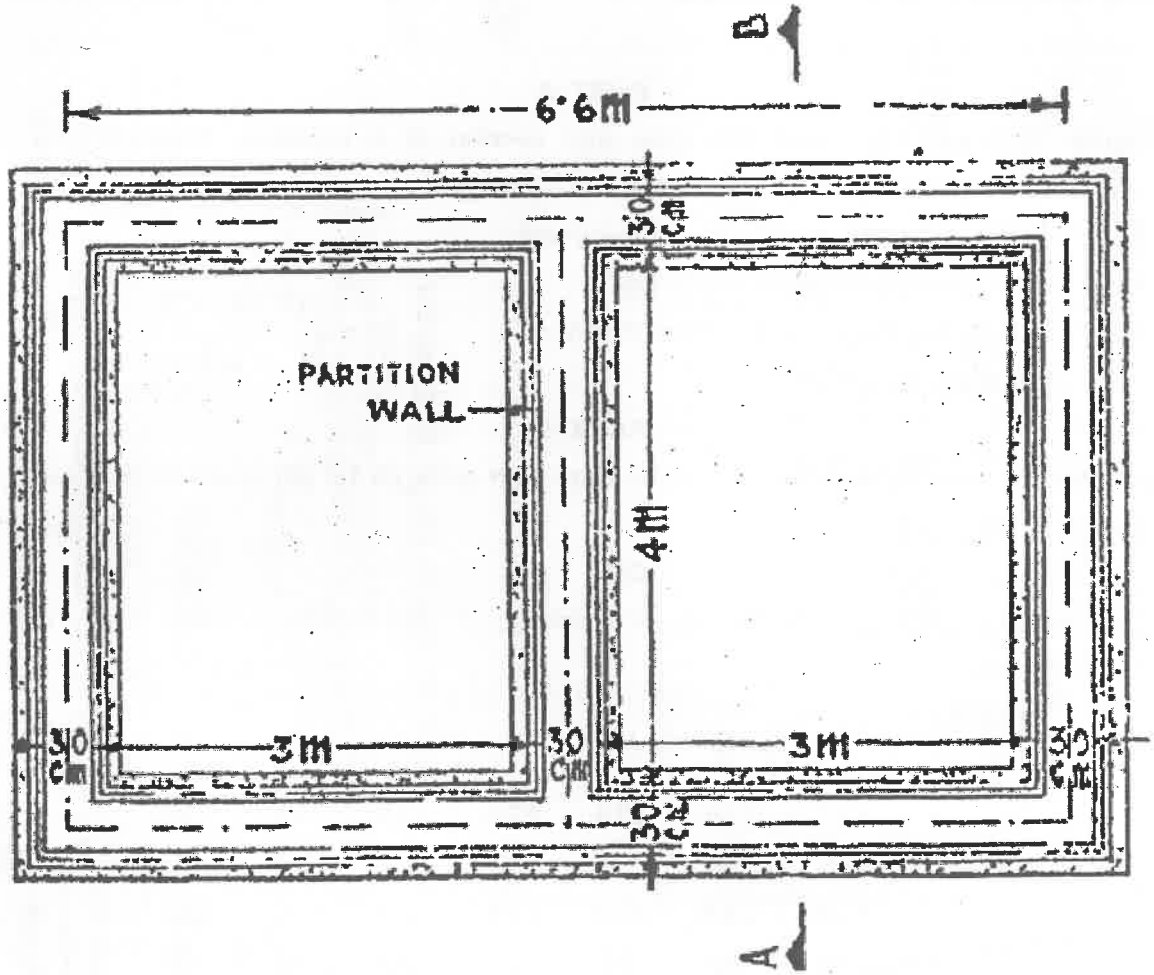

Fig. 1(a)

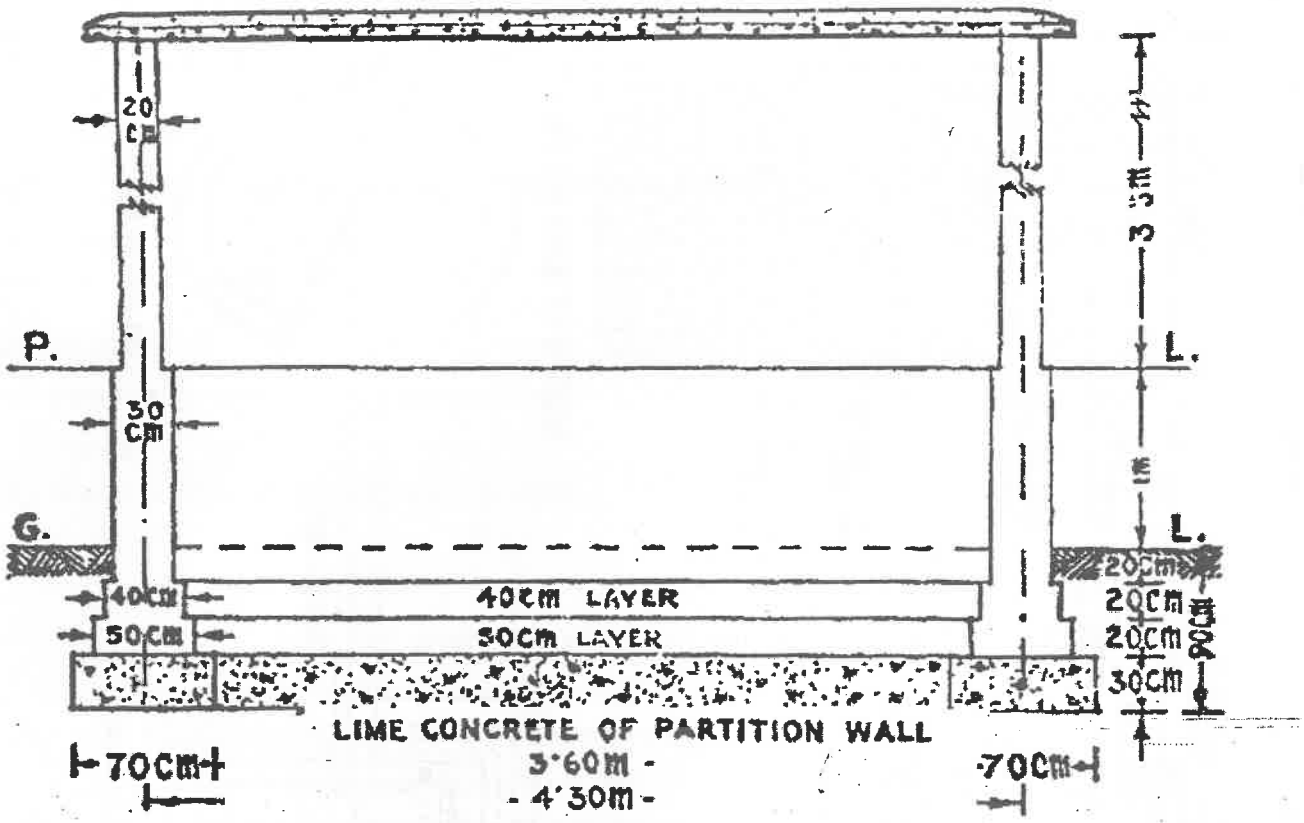
20 cm
30 cm
P.
L.
G.
L.
40cm
50cm
40cm LAYER
50cm LAYER
20cm
20cm
20cm
30cm
80cm
3 m
1m
LIME CONCRETE OF PARTITION WALL
70cm
70cm
3·60m
4·30m

Fig. 1(b)

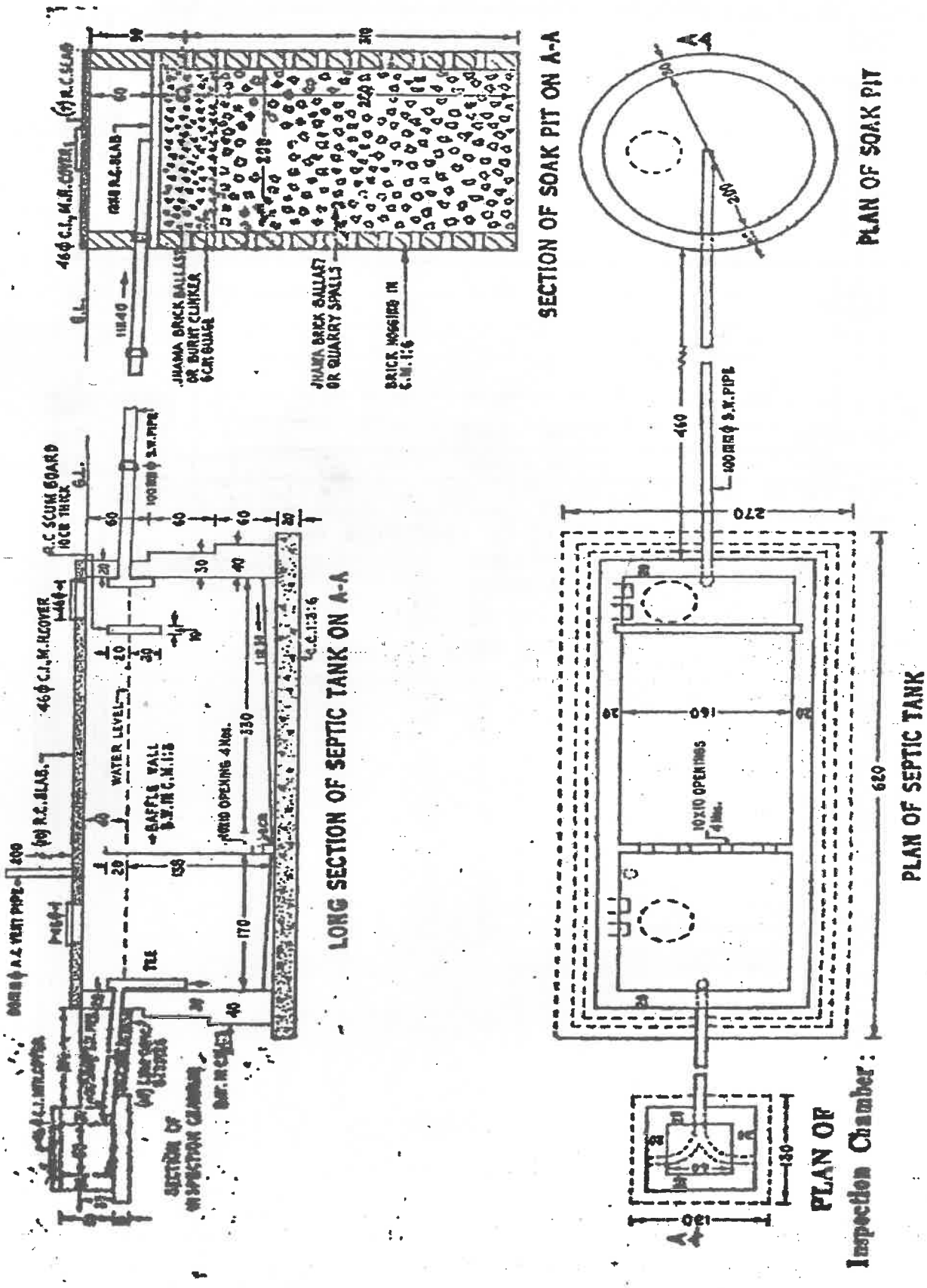
SECTION OF SOAK PIT ON A-A
PLAN OF SOAK PIT
LONG SECTION OF SEPTIC TANK ON A-A
PLAN OF SEPTIC TANK
PLAN OF
Inspection Chamber :

Fig. 2